## Mini-VLAT Questions

This test measures your ability to read and interpret different visualizations.

1. There will be total 12 different questions.
2. You will get +1 point for every correct answer and there is no negative point for an incorrect response.
3. This quiz will not take more than 5-6 minutes to complete
4. If you are unsure of the answer, skip it.

### 1. eBay is nested in the Software category.

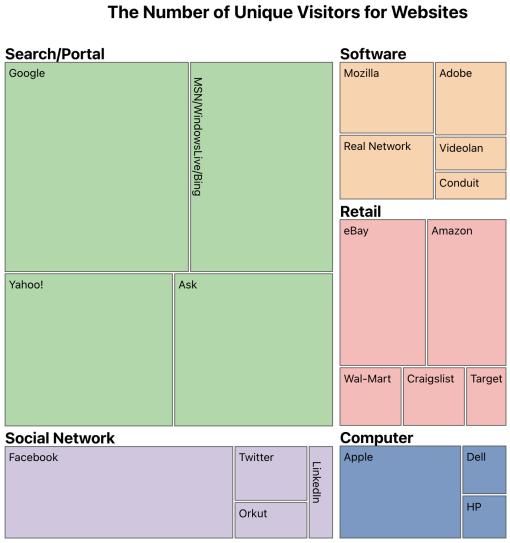


- o Yes
- o No

### 2. Which country has the lowest proportion of Gold medals?

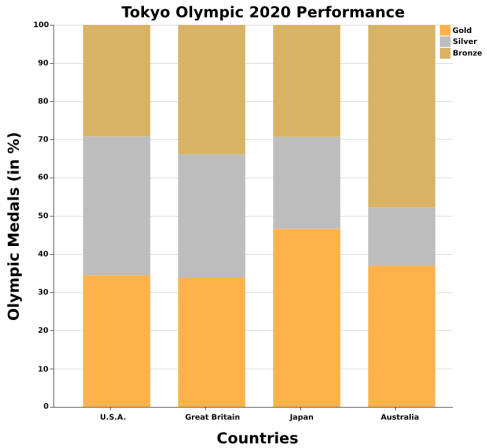


- o Great Britain
- o USA
- o Japan
- o Australia

### 3. What distance have customers traveled in the taxi the most?

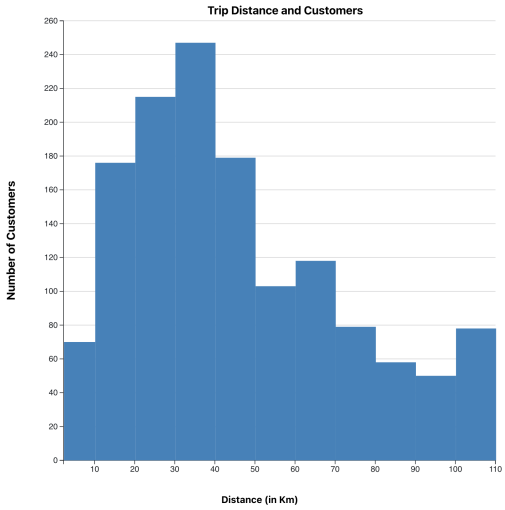


- o 60 – 70 km
- o 30 – 40 km
- o 20 – 30 km
- o 50 – 60 km

### 4. In 2020, the unemployment rate for Washington (WA) was higher than that of Wisconsin (WI)?

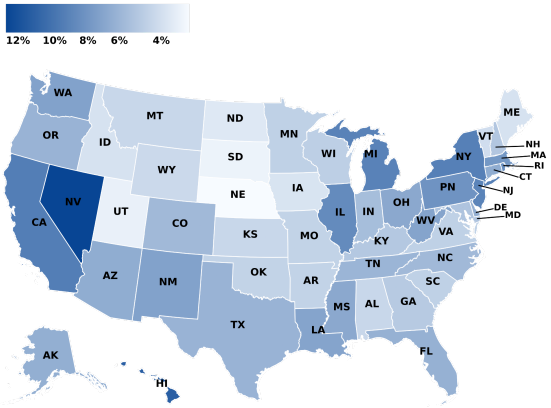


- o True
- o False

5. **What is the approximate global smartphone market share of Samsung?**

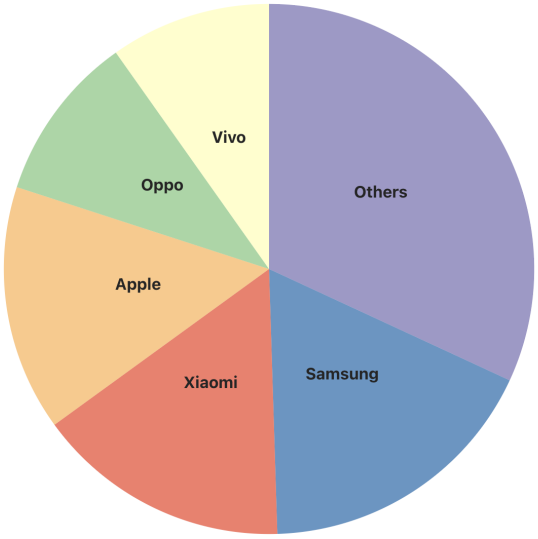


- o 17.6%
- o 25.3%
- o 10.9%
- o 35.2%

6. **Which city's metro system has the largest number of stations?**

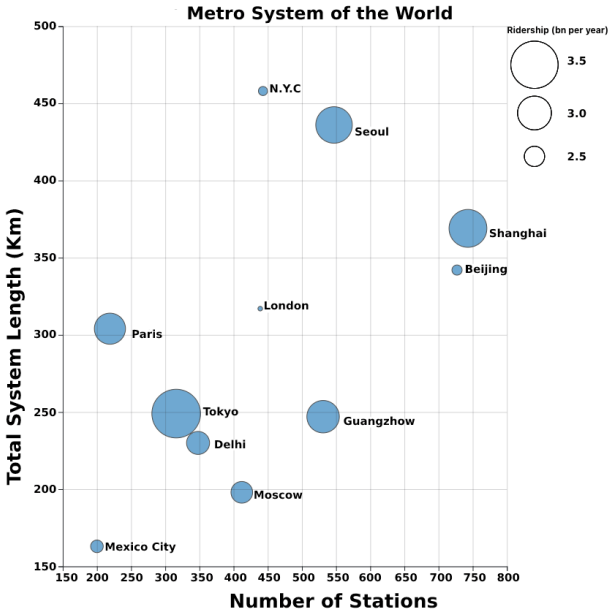


- o Beijing
- o Shanghai
- o London
- o Seoul

7. **What is the cost of peanuts in Seoul?**

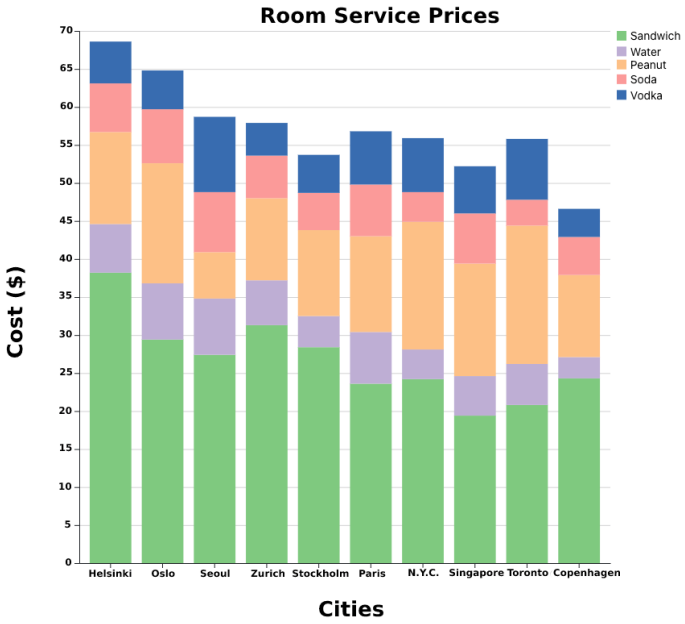


- o $5.2
- o $6.1
- o $7.5
- o $4.5

8. **What was the price of a barrel of oil in February 2020?**

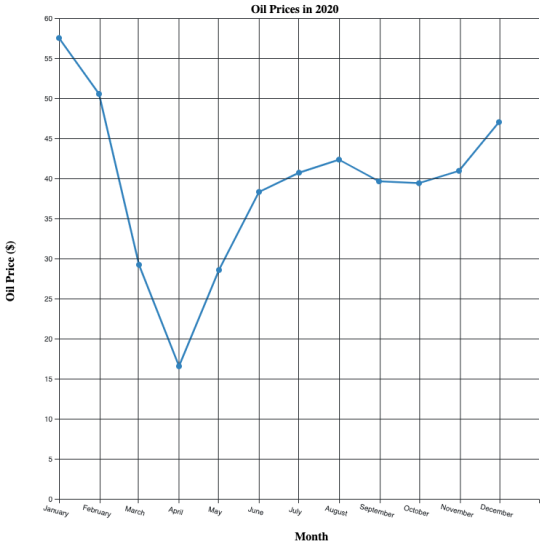


- o $50.54
- o $47.02
- o $42.34
- o $43.48

9. **What is the average internet speed in Japan?**

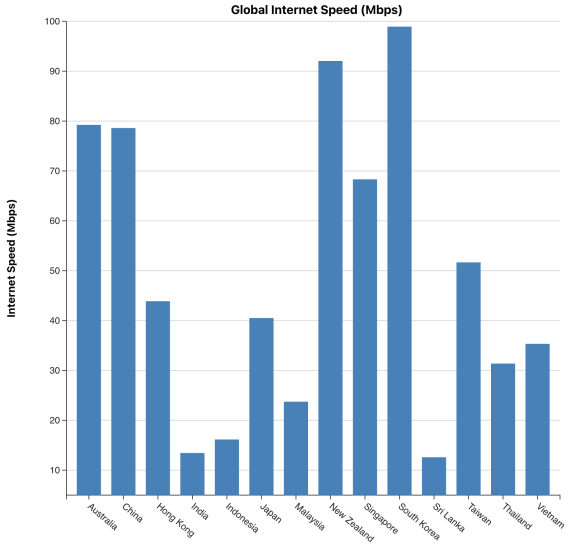


- o 42.30 Mbps
- o 40.51 Mbps
- o 35.25 Mbps
- o 16.16 Mbps

10. **What was the average price of a pound of coffee in October 2019?**

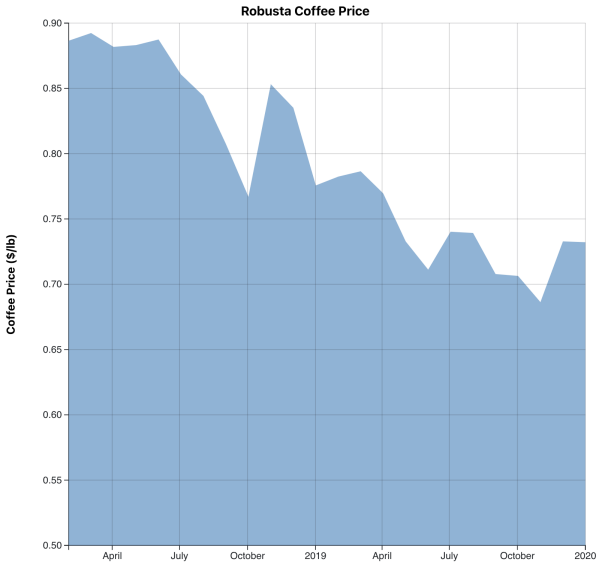


- o $0.71
- o $0.90
- o $0.80
- o $0.63

11. **What was the ratio of girls named "Isla" to girls named "Amelia" in 2012 in the UK?**

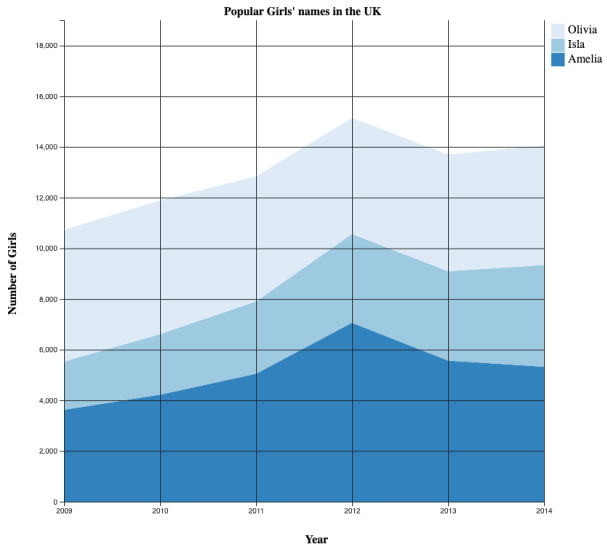


- o 1 to 1
- o 1 to 2
- o 1 to 3
- o 1 to 4

12. **There is a negative relationship between the height and the weight of the 85 males.**

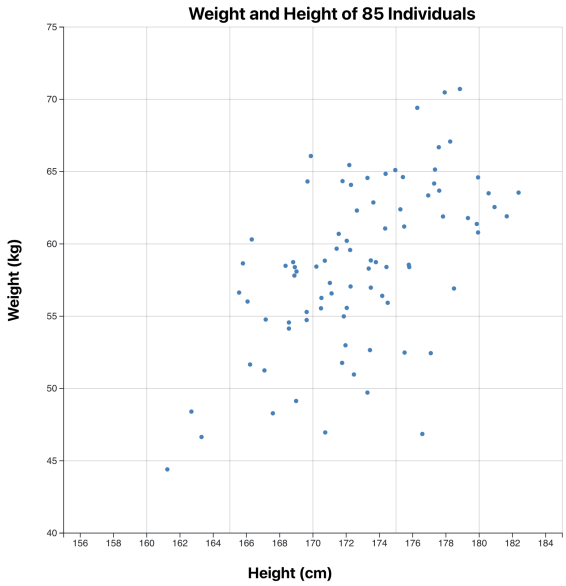


- o True
- o False

**Answer Key**

| | |
|---|---|
| **Q1** | No |
| **Q2** | Great Britain |
| **Q3** | 30 - 40 Km |
| **Q4** | True |
| **Q5** | 17.6 % |
| **Q6** | Shanghai |
| **Q7** | $6.1 |
| **Q8** | $50.54 |
| **Q9** | 40.51 Mbps |
| **Q10** | $0.71 |
| **Q11** | 1 to 2 |
| **Q12** | False |