Mini-VLAT Questions

This test measures your ability to read and interpret different visualizations.

1. There will be total 12 different questions.
2. You will get +1 point for every correct answer and there is no negative point for an incorrect response.
3. This quiz will not take more than 5-6 minutes to complete
4. If you are unsure of the answer, skip it.

1. eBay is nested in the Software category.

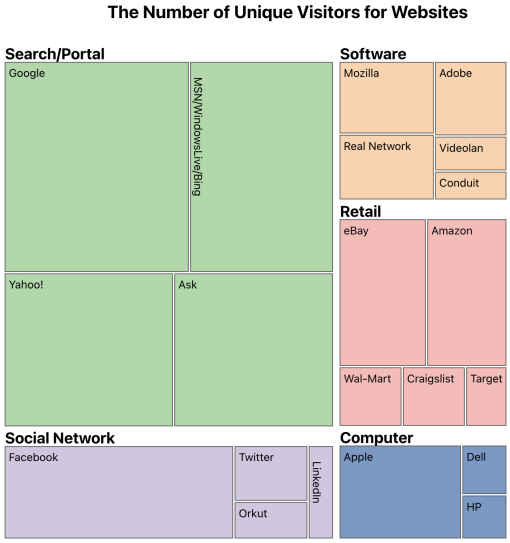

- o True
- o False

2. Which country has the lowest proportion of Gold medals?

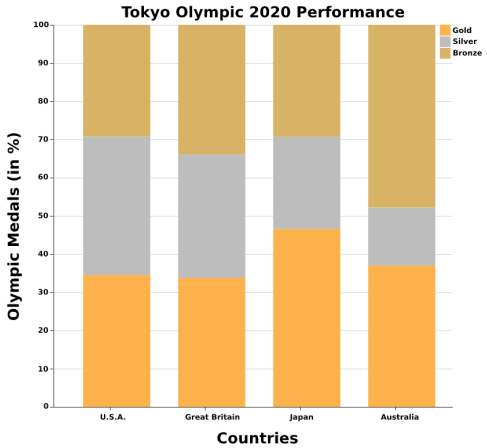

- o Great Britain
- o USA
- o Japan
- o Australia

3. What distance have customers traveled in the taxi the most?

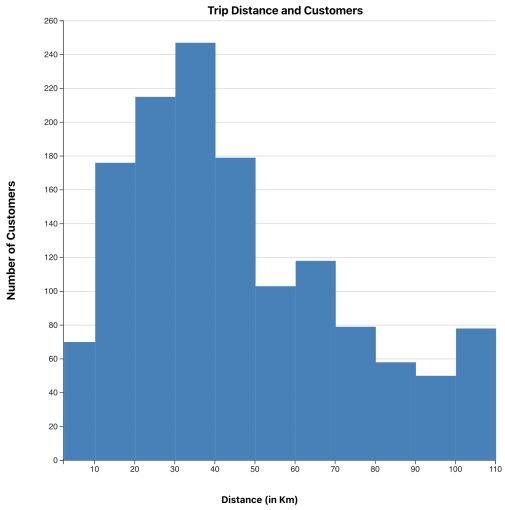

- o 60 – 70 km
- o 30 – 40 km
- o 20 – 30 km
- o 50 – 60 km

4. In 2020, the unemployment rate for Washington (WA) was higher than that of Wisconsin (WI)?

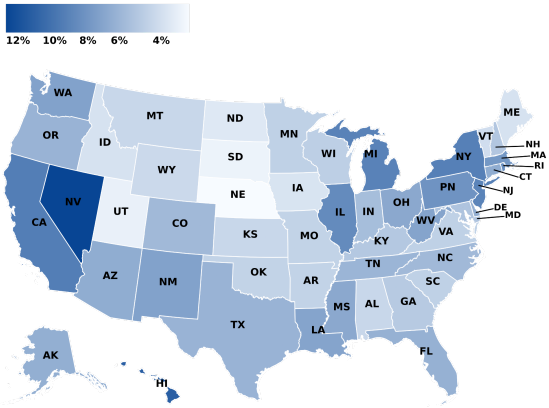

- o True
- o False

5. **What is the approximate global smartphone market share of Samsung?**

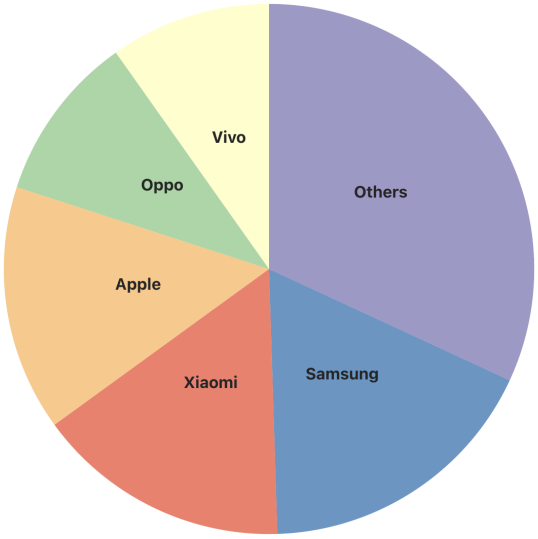

- o 17.6%
- o 25.3%
- o 10.9%
- o 35.2%

6. **Which city's metro system has the largest number of stations?**

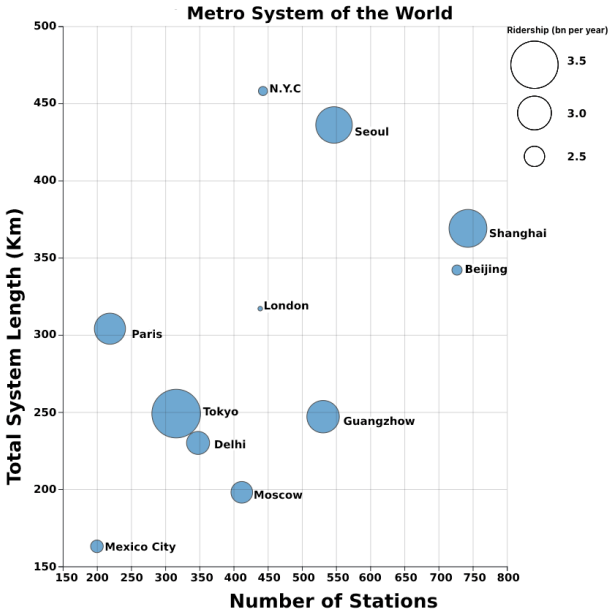

- o Beijing
- o Shanghai
- o London
- o Seoul

7. **What is the cost of peanuts in Seoul?**

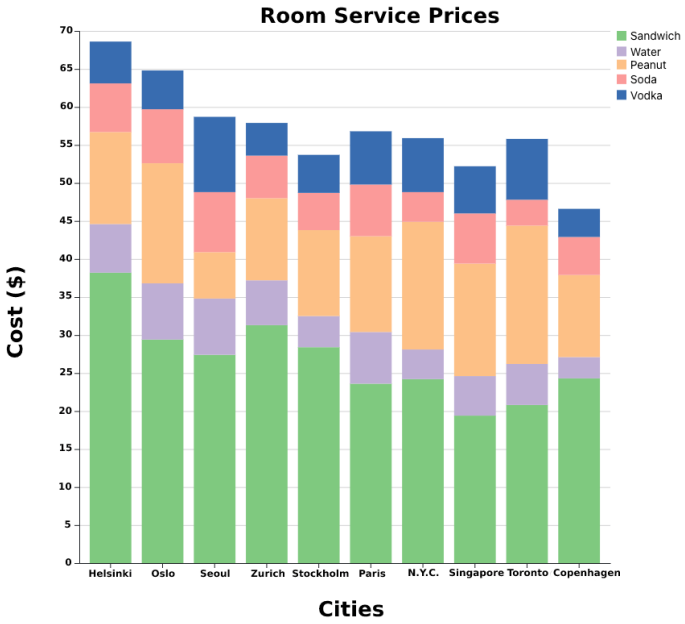

- o $5.2
- o $6.1
- o $7.5
- o $4.5

8. **What was the price of a barrel of oil in February 2020?**

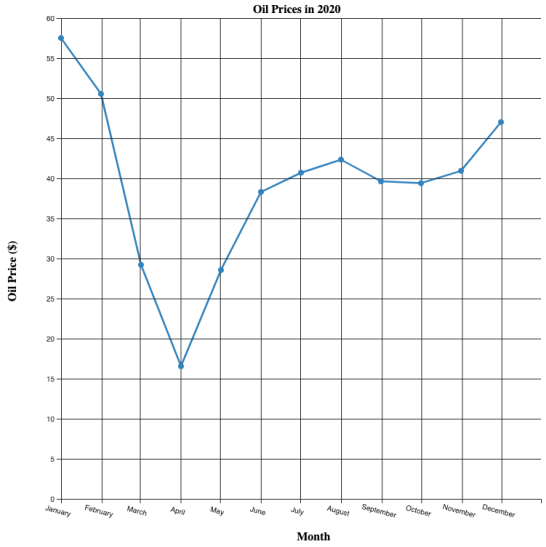

- o $50.54
- o $47.02
- o $42.34
- o $43.48

9. **What is the average internet speed in Japan?**

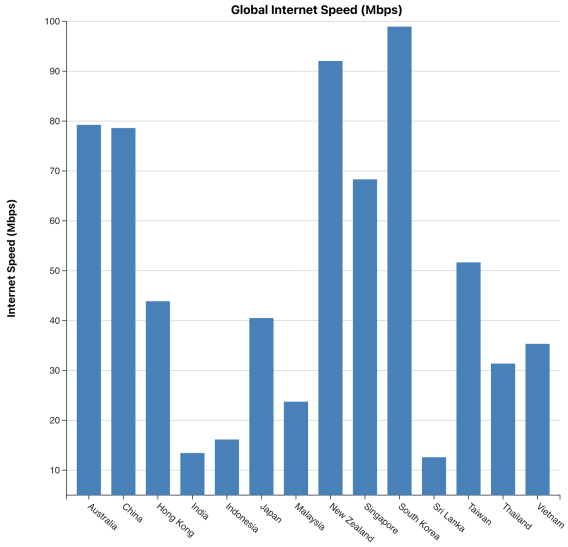

- o 42.30 Mbps
- o 40.51 Mbps
- o 35.25 Mbps
- o 16.16 Mbps

10. **What was the average price of a pound of coffee in October 2019?**

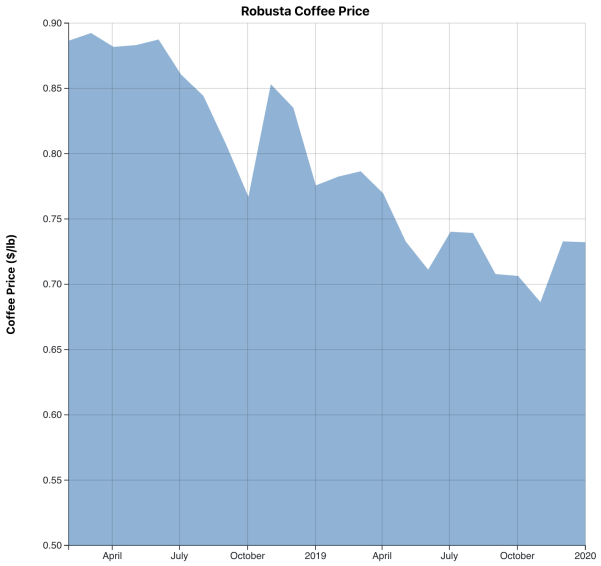

- o $0.71
- o $0.90
- o $0.80
- o $0.63

11. **What was the ratio of girls named "Isla" to girls named "Amelia" in 2012 in the UK?**

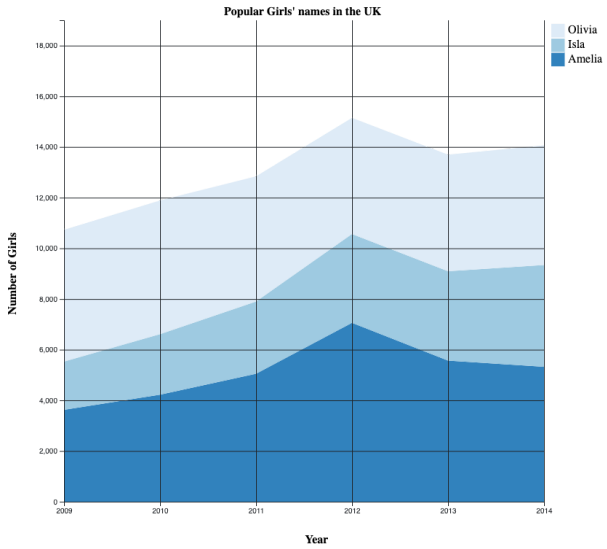

- o 1 to 1
- o 1 to 2
- o 1 to 3
- o 1 to 4

12. **There is a negative relationship between the height and the weight of the 85 males.**

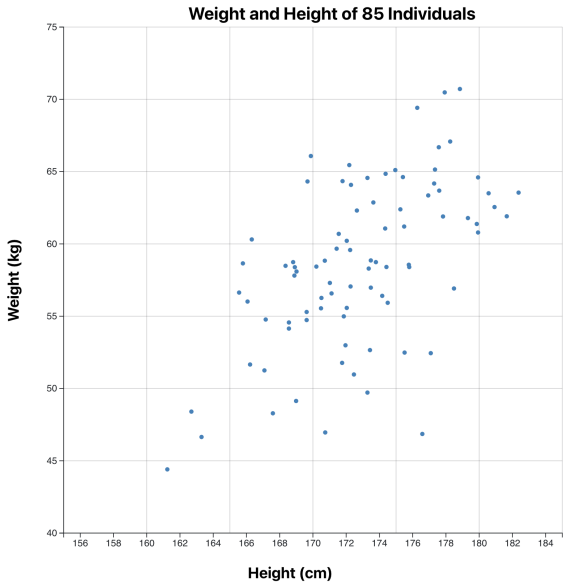

- o True
- o False

Answer Key

Q1	No
Q2	Great Britain
Q3	30 - 40 Km
Q4	True
Q5	17.6 %
Q6	Shanghai
Q7	$6.1
Q8	$50.54
Q9	40.51 Mbps
Q10	$0.71
Q11	1 to 2
Q12	False